CPSC-406 Report

Nathan Carnnahan
Chapman University

March 8, 2026

Abstract

Contents

1 Introduction **2**

2 Week by Week **2**

2.1 Week 1 2

2.2 Week 2 3

2.3 Week 3 7

2.4 Week 4 10

3 Synthesis **12**

4 Evidence of Participation **12**

5 Conclusion **12**

1 Introduction

2 Week by Week

2.1 Week 1

HW1 – DFA Exercises

Exercise 1 We are given two DFAs A_1 and A_2.

Accepted Words Table

w	Accepted by A_1?	Accepted by A_2?
aaa	No	Yes
aab	Yes	No
aba	No	No
abb	No	No
baa	No	Yes
bab	No	No
bba	No	No
bbb	No	No

Language Descriptions

- $L(A_1)$: all strings over $\{a, b\}$ that start with a and end with an odd number of b's.
- $L(A_2)$: all strings over $\{a, b\}$ that end with at least two consecutive a's.

Exercise 2 – Designing DFAs

1. Words that end with ab

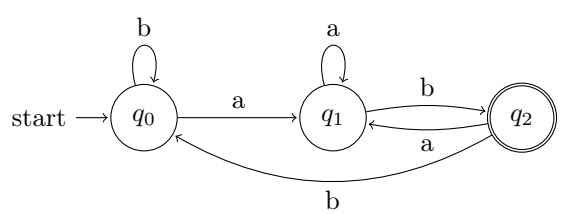

2. Words that contain aba

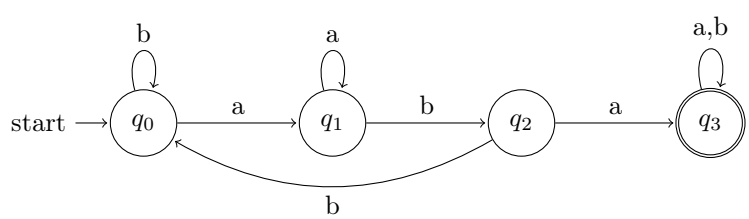

3. Odd number of a's and odd number of b's States represent parity: (a-parity, b-parity).

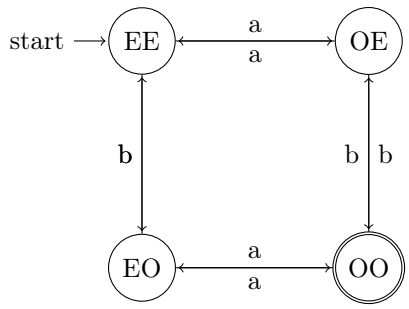

4. Even number of a's and odd number of b's Same automaton as above, but accepting state is EO.

5. Any three consecutive characters contain at least one a Equivalent to forbidding substring bbb.

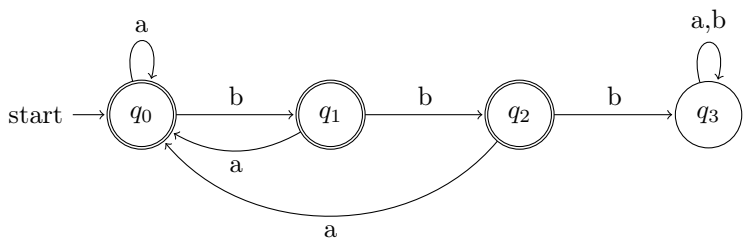

6. Words that contain bbb

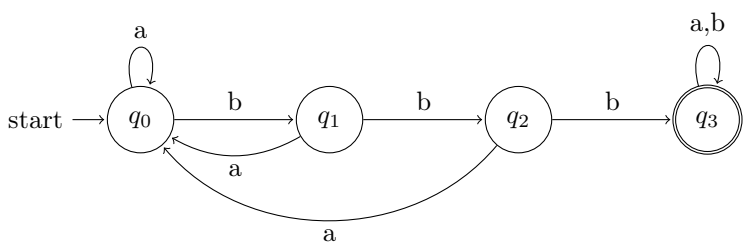

Observation

- Problems 3 and 4 use the same parity structure; only the accepting state changes.
- Problems 5 and 6 use the same "count consecutive b's" structure; one treats reaching three b's as rejection, the other as acceptance.
- Problems 1 and 2 track progress toward matching a pattern.

2.2 Week 2

HW2 – Operations on automata

Exercise 1 (Product automata). Throughout, $\Sigma = \{a, b\}$.

1. Description of $L(A^{(1)})$ and $L(A^{(2)})$.

<u>$A^{(1)}$:</u>

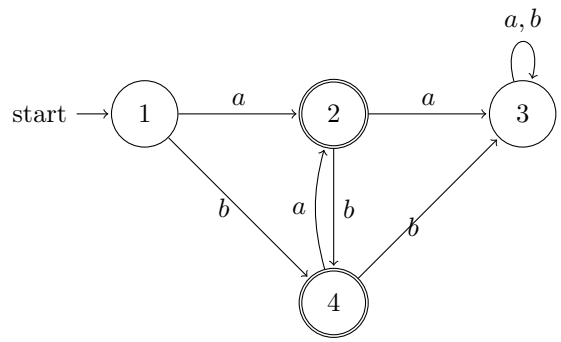

The accepting states are $\{2, 4\}$ and state 3 is a non-accepting sink (it loops on both a and b). From state 2, reading a goes to the sink; from state 4, reading b goes to the sink. Thus, once the first symbol is read, the letters must alternate in order to avoid the sink.

Therefore,

$$L(A^{(1)}) = \{\, w \in \{a, b\}^* : |w| \geq 1 \text{ and } w \text{ contains no substring } aa \text{ or } bb \,\}.$$

Equivalently,

$$L(A^{(1)}) = a(ba)^*(\varepsilon \mid b) \;\cup\; b(ab)^*(\varepsilon \mid a).$$

<u>$A^{(2)}$:</u>

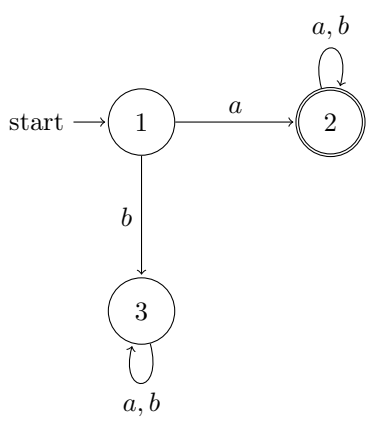

The only accepting state is 2. From state 1, reading b leads to a sink. Reading a moves $1 \to 2$, and from 2 any symbol returns to 1.

Thus a word must:

- start with a,
- have odd length,
- have a in every odd position.

Hence,

$$L(A^{(2)}) = a\big((a \mid b)a\big)^*.$$

2. Intersection automaton $A = A^{(1)} \times A^{(2)}$.

- States: $Q = Q_1 \times Q_2$

- Start state: $(1,1)$
- Accepting states:
$$F = F_1 \times F_2 = \{2,4\} \times \{2\}$$
- Transition function:
$$\delta((p,q),x) = (\delta_1(p,x), \delta_2(q,x))$$

The reachable accepting state is $(2,2)$.

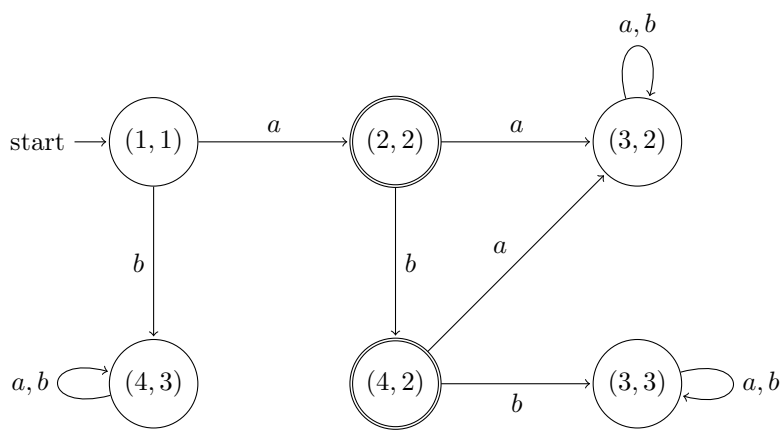

3. Proof that $L(A) = L(A^{(1)}) \cap L(A^{(2)})$.

For any word w, by induction on prefixes, after reading w the product automaton is in state
$$(\delta_1(1,w), \delta_2(1,w)).$$
Thus A accepts w iff both component automata accept w. Therefore,
$$L(A) = L(A^{(1)}) \cap L(A^{(2)}).$$

4. Construction of union automaton A'.

Keep the same product states and transitions, but define the accepting set as
$$F' = (F_1 \times Q_2) \ \cup \ (Q_1 \times F_2).$$
Then A' accepts whenever at least one component accepts, so
$$L(A') = L(A^{(1)}) \cup L(A^{(2)}).$$

Exercise 2 (More automata). 1. Description of $L(B^{(1)})$ and $L(B^{(2)})$.

<u>$B^{(1)}$:</u>

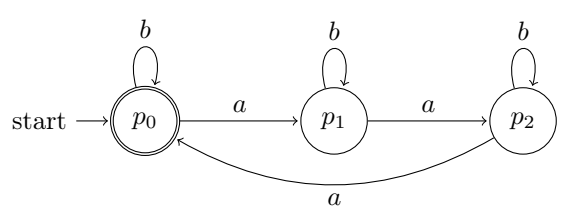

State p_0 is accepting. Reading a cycles

$$p_0 \to p_1 \to p_2 \to p_0,$$

while b loops at each state.

Thus $B^{(1)}$ accepts exactly when the number of a's is divisible by 3:

$$L(B^{(1)}) = \{\, w \in \{a,b\}^* : \#_a(w) \equiv 0 \pmod 3 \,\}.$$

<u>$B^{(2)}$:</u>

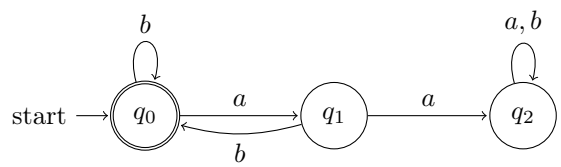

State q_0 is accepting. The automaton goes to a sink q_2 if the substring aa occurs. Also, q_1 is non-accepting, so a word ending in a is rejected.

Hence

$$L(B^{(2)}) = \{\, w \in \{a,b\}^* : w \text{ has no substring } aa \text{ and does not end with } a \,\}.$$

Equivalently,

$$L(B^{(2)}) = (b \mid ab)^*.$$

2. Intersection automaton $B = B^{(1)} \times B^{(2)}$.

- Start state: (p_0, q_0)
- Accepting states:

$$F = \{(p_0, q_0)\}$$

- Transition function:

$$\delta((p_i, q_j), x) = (\delta_1(p_i, x), \delta_2(q_j, x))$$

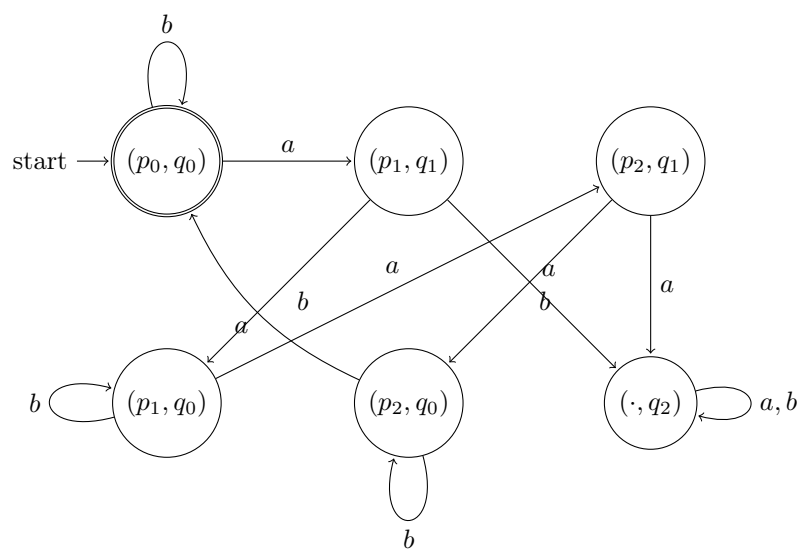

3. Proof that $L(B) = L(B^{(1)}) \cap L(B^{(2)})$.

After reading any word w, the product automaton is in state

$$(\delta_1(p_0, w), \delta_2(q_0, w)).$$

Thus B accepts w iff both component automata accept w. Therefore,

$$L(B) = L(B^{(1)}) \cap L(B^{(2)}).$$

4. Construction of union automaton B'.

Using De Morgan's law:

$$L(B^{(1)}) \cup L(B^{(2)}) = \overline{\overline{L(B^{(1)})} \cap \overline{L(B^{(2)})}}.$$

1. Complement $B^{(1)}$ and $B^{(2)}$ by swapping accepting and non-accepting states.
2. Construct their product automaton for intersection.
3. Complement the resulting automaton.

This yields B' such that

$$L(B') = L(B^{(1)}) \cup L(B^{(2)}).$$

Exercise 2.2.7 Let A be a DFA and let q be a state such that $\delta(q, a) = q$ for all input symbols $a \in \Sigma$. We prove by induction on $|w|$ that for all strings $w \in \Sigma^*$, $\hat{\delta}(q, w) = q$.

Proof. **Base case:** $|w| = 0$, so $w = \varepsilon$. By definition of $\hat{\delta}$, $\hat{\delta}(q, \varepsilon) = q$.

Inductive step: Assume that for some $n \geq 0$, for every string $x \in \Sigma^*$ with $|x| = n$ we have $\hat{\delta}(q, x) = q$. Let $w \in \Sigma^*$ be any string with $|w| = n + 1$. Then w can be written as $w = xa$ where $|x| = n$ and $a \in \Sigma$ is the last symbol. Using the recursive definition of $\hat{\delta}$,

$$\hat{\delta}(q, xa) = \delta(\hat{\delta}(q, x), a).$$

By the inductive hypothesis, $\hat{\delta}(q, x) = q$, so

$$\hat{\delta}(q, xa) = \delta(q, a) = q,$$

where the last equality uses the assumption that $\delta(q, a) = q$ for all $a \in \Sigma$. Thus $\hat{\delta}(q, w) = q$ for all w of length $n + 1$.

By induction, $\hat{\delta}(q, w) = q$ for all $w \in \Sigma^*$. □

Interesting Question for Discord (from §2.2.4) Can the same automaton be setup to accept multiple languages? If so, can we use the same automaton hardware to create a multifunctional dfa?

2.3 Week 3

Assignment 3 – NFAs and Determinization

Question 1

For the alphabet $\Sigma = \{a, b, c\}$ consider the NFA A shown in the prompt.

1. Regular expression for $L(A)$. From the start state 0, we may read any number of a's and b's while staying in state 0. At some point we must read an a to move to state 1, and then read exactly one more symbol (b or c) to reach an accepting state. Therefore the language is

$$L(A) = (a \mid b)^* \, a \, (b \mid c).$$

2. NFA specification $(Q, \Sigma, \delta, q_0, F)$.

- $Q = \{0, 1, 2, 3\}$
- $\Sigma = \{a, b, c\}$
- $q_0 = 0$
- $F = \{2, 3\}$
- Transition function $\delta : Q \times \Sigma \to \mathcal{P}(Q)$ given by:

q	$\delta(q, a)$	$\delta(q, b)$	$\delta(q, c)$
0	$\{0, 1\}$	$\{0\}$	$\emptyset$
1	$\emptyset$	$\{2\}$	$\{3\}$
2	$\emptyset$	$\emptyset$	$\emptyset$
3	$\emptyset$	$\emptyset$	$\emptyset$

3. All paths for $v = abab$. Because $\delta(0, a) = \{0, 1\}$, the first symbol a branches into two threads. The diagram below shows all paths; the accepting path is marked with ✓ and the stuck path is marked with $\times$.

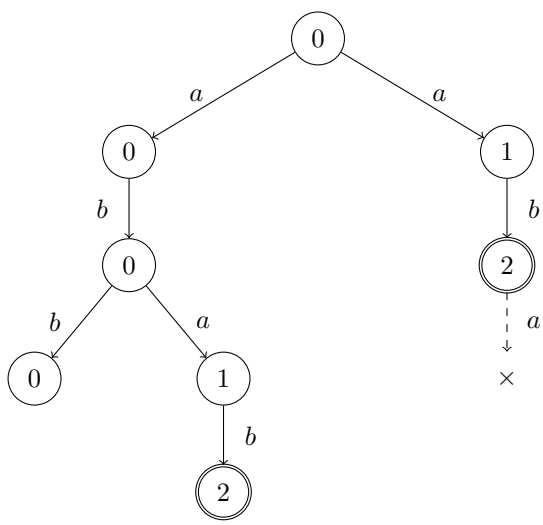

The rightmost branch gets stuck after reading ab because state 2 has no outgoing transitions. The only accepting computation is the leftmost path:

$$0 \xrightarrow{a} 0 \xrightarrow{b} 0 \xrightarrow{a} 1 \xrightarrow{b} 2 \checkmark$$

4. Determinization A^D (powerset construction). The DFA states are subsets of Q. The reachable subsets are

$$\{0\},\ \{0, 1\},\ \{0, 2\},\ \{3\},\ \emptyset.$$

The start state is $\{0\}$ and the accepting DFA states are those subsets containing 2 or 3, i.e.

$$F_D = \{\{0, 2\}, \{3\}\}.$$

Transition table for A^D.

S	$\delta_D(S,a)$	$\delta_D(S,b)$	$\delta_D(S,c)$
$\{0\}$	$\{0,1\}$	$\{0\}$	$\emptyset$
$\{0,1\}$	$\{0,1\}$	$\{0,2\}$	$\{3\}$
$\{0,2\}$	$\{0,1\}$	$\{0\}$	$\emptyset$
$\{3\}$	$\emptyset$	$\emptyset$	$\emptyset$
$\emptyset$	$\emptyset$	$\emptyset$	$\emptyset$

Graphical depiction of A^D.

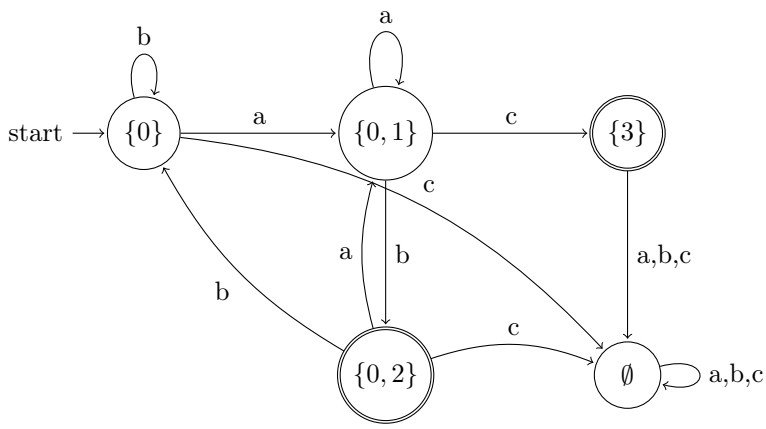

Question 2

For the alphabet $\Sigma = \{0,1\}$ consider the NFA A shown in the prompt.

1. Determinization A^D (powerset construction). The NFA transitions are:

$$\delta(q_0,0) = \{q_0\},\ \delta(q_0,1) = \{q_0,q_1\},\ \delta(q_1,1) = \{q_2\},\ \delta(q_2,0) = \{q_1,q_3\},\ \delta(q_3,0) = \delta(q_3,1) = \{q_3\}$$

and all other transitions are $\emptyset$.

The reachable DFA states (subsets) are:

$$\{q_0\},\ \{q_0,q_1\},\ \{q_0,q_1,q_2\},\ \{q_0,q_1,q_3\},\ \{q_0,q_3\},\ \{q_0,q_1,q_2,q_3\}.$$

Start state: $\{q_0\}$. Accepting DFA states are those containing q_3.

Transition table for A^D.

S	$\delta_D(S,0)$	$\delta_D(S,1)$
$\{q_0\}$	$\{q_0\}$	$\{q_0,q_1\}$
$\{q_0,q_1\}$	$\{q_0\}$	$\{q_0,q_1,q_2\}$
$\{q_0,q_1,q_2\}$	$\{q_0,q_1,q_3\}$	$\{q_0,q_1,q_2\}$
$\{q_0,q_1,q_3\}$	$\{q_0,q_3\}$	$\{q_0,q_1,q_2,q_3\}$
$\{q_0,q_3\}$	$\{q_0,q_3\}$	$\{q_0,q_1,q_3\}$
$\{q_0,q_1,q_2,q_3\}$	$\{q_0,q_1,q_3\}$	$\{q_0,q_1,q_2,q_3\}$

Graphical depiction of A^D.

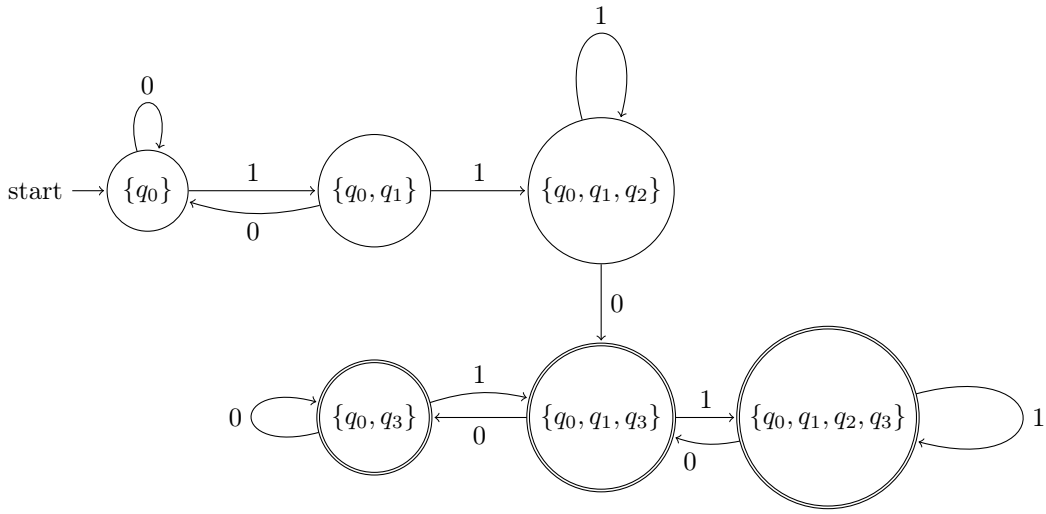

2. Smaller DFA accepting the same language. Intuitively, because q_0 loops on both 0 and 1, the NFA can "start" its nontrivial behavior at any position. To reach the accepting state q_3 we must read the pattern

$$1\,1\,0$$

in consecutive positions (take $q_0 \xrightarrow{1} q_1 \xrightarrow{1} q_2 \xrightarrow{0} q_3$). Once in q_3, the automaton accepts and stays accepting forever. Thus the language is exactly the set of binary strings containing substring 110.

A minimal DFA for "contains 110" has 4 states tracking the longest suffix that is also a prefix of 110:

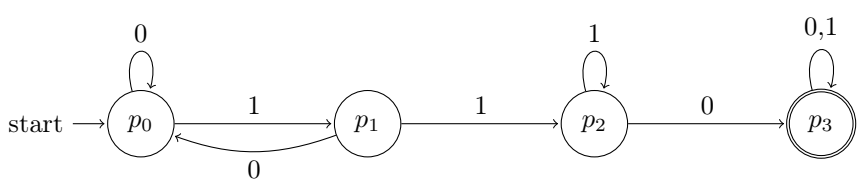

Here p_3 is the accepting sink (we have seen 110).

2.4 Week 4

HW4 – Kleene's Algorithm and Testing Equivalence

Exercise 1 – Kleene's Algorithm Consider the DFA with states p and q, where p is the start and accepting state, and the transitions are:

$$p \xrightarrow{a} p, \quad p \xrightarrow{b} q, \quad q \xrightarrow{a} p, \quad q \xrightarrow{b} q.$$

Let $1 = p$ and $2 = q$.

For Kleene's algorithm, the base regular expressions are:

$$R_{11}^{(0)} = \varepsilon + a, \qquad R_{12}^{(0)} = b, \qquad R_{21}^{(0)} = a, \qquad R_{22}^{(0)} = \varepsilon + b.$$

Using the recurrence

$$R_{ij}^{(k)} = R_{ij}^{(k-1)} + R_{ik}^{(k-1)} \left(R_{kk}^{(k-1)}\right)^* R_{kj}^{(k-1)},$$

we compute the next stage:

$$R_{11}^{(1)} = a^*$$
$$R_{12}^{(1)} = a^*b$$
$$R_{21}^{(1)} = aa^*$$
$$R_{22}^{(1)} = \varepsilon + a^*b$$

Then

$$R_{11}^{(2)} = R_{11}^{(1)} + R_{12}^{(1)} \left(R_{22}^{(1)}\right)^* R_{21}^{(1)}.$$

A simpler equivalent regular expression for the language is:

$$R = \varepsilon + (a+b)^*a.$$

Thus, the language accepted by the DFA is:

$$L(A) = L(R) = \{\varepsilon\} \cup \{w \in \{a,b\}^* : w \text{ ends in } a\}.$$

Exercise 2 – Testing Equivalence of Regular Languages We apply the table-filling algorithm to the two DFAs in ITALC Exercise 4.4.2.

The first DFA has states A, B, where A is accepting and B is non-accepting. The second DFA has states C, D, E, where C and D are accepting and E is non-accepting.

The accepting states are:

$$A,\ C,\ D$$

and the non-accepting states are:

$$B,\ E.$$

First, we mark all pairs where one state is accepting and the other is not:

$$(A,B),\ (A,E),\ (C,B),\ (C,E),\ (D,B),\ (D,E).$$

The remaining pairs are:

$$(A,C),\ (A,D),\ (B,E),\ (C,D).$$

Now we check transitions:

- (A,C):
$$\delta(A,0) = A,\ \delta(C,0) = D \Rightarrow (A,D), \qquad \delta(A,1) = B,\ \delta(C,1) = E \Rightarrow (B,E)$$
Neither resulting pair is marked, so (A,C) remains unmarked.
- (A,D):
$$\delta(A,0) = A,\ \delta(D,0) = D \Rightarrow (A,D), \qquad \delta(A,1) = B,\ \delta(D,1) = E \Rightarrow (B,E)$$
So (A,D) remains unmarked.
- (B,E):
$$\delta(B,0) = A,\ \delta(E,0) = C \Rightarrow (A,C), \qquad \delta(B,1) = B,\ \delta(E,1) = E \Rightarrow (B,E)$$
So (B,E) remains unmarked.

- (C, D):
$$\delta(C, 0) = D,\ \delta(D, 0) = D, \qquad \delta(C, 1) = E,\ \delta(D, 1) = E$$
So (C, D) remains unmarked.

Since the start states A and C are not distinguishable, the two DFAs are equivalent.

Therefore,
$$L_1 = L_2.$$

In fact, both DFAs accept all binary strings that are either empty or end in 0.

Question When applying Kleene's algorithm for the exercise, do we need to explicitly compute every $R_{ij}^{(k)}$ value for all i, j, k, or is it sufficient to compute only the expressions necessary to derive the final regular expression describing the language?

3 Synthesis

4 Evidence of Participation

5 Conclusion

References

[BLA] Nathan Carnnahan, CPSC-406 Report, Nathan Carnnahan, 2026.